frq8

1. $$3\ Ag(s) + 4\ HNO_3(aq) \rightarrow 3\ AgNO_3(aq) + NO(g) + 2\ H_2O(l)$$

A student investigates the reaction between $Ag(s)$ and $HNO_3(aq)$ represented by the equation above.

a. Predict the sign of the entropy change, $\Delta S°$, for the reaction. Justify your answer.

b. Use the information in the table below to calculate the value $\Delta H_{rxn}°$, the standard enthalpy change for the reaction, in kJ/mol$_{rxn}$.

Substance	$HNO_3(aq)$	$AgNO_3(aq)$	$NO(g)$	$H_2O(l)$
Standard Heat of Formation, $\Delta H_f°$ (kJ/mol)	−207	−101	90.	−286

c. Based on your answers to parts (a) and (b), is the reaction more likely to be thermodynamically favorable at 25°C, or at 95°C? Justify your answer.

d. The student runs the reaction using a 3 to 4 mole ratio of $Ag(s)$ to $HNO_3(aq)$. Suggest a method the student can use to isolate solid $AgNO_3$ from the other products of the reaction.

Part A

1 point is earned for the correct answer and a valid justification.

The entropy change is positive because the reaction has one mole of gas in the products and none in the reactants.

0	1 ✓

Student earns 1/1 point(s)

1 point is earned for the correct answer and a valid justification.

The entropy change is positive because the reaction has one mole of gas in the products and none in the reactants.

Part B

1 point is earned for the correct calculation of the value of $\Delta H°$.

$\Delta H° = 3(-101) + 90. + 2(-286) - 4(-207)$

$= 43$ kJ/mol$_{rxn}$

frq8

0	1 ✓

Student earns 1/1 point(s)

1 point is earned for the correct calculation of the value of $\Delta H°$.

$\Delta H° = 3(-101) + 90. +2(-286) - 4(-207)$

$= 43$ kJ/mol*rxn*

Part C

1 point is earned for the correct answer and a valid justification.

$\Delta G° = \Delta H° - T\Delta S°$

The reaction is more likely to be favorable at 95°C. At the higher temperature, the term $T\Delta S°$ is larger and positive; thus, when subtracted from $\Delta H°$, the value of $\Delta G°$ is more likely to be negative.

0	1 ✓

Student earns 1/1 point(s)

1 point is earned for the correct answer and a valid justification.

$\Delta G° = \Delta H° - T\Delta S°$

The reaction is more likely to be favorable at 95°C. At the higher temperature, the term $T\Delta S°$ is larger and positive; thus, when subtracted from $\Delta H°$, the value of $\Delta G°$ is more likely to be negative.

Part D

1 point is earned for a valid method.

The student can evaporate the water, leaving behind solid silver nitrate.

0	1 ✓

Student earns 1/1 point(s)

frq8

1 point is earned for a valid method.

The student can evaporate the water, leaving behind solid silver nitrate.

2. Answer the following questions about the solubility of $Ca(OH)_2$ ($K_{sp} = 1.3 \times 10^{-6}$) .

a. Write a balanced chemical equation for the dissolution of $Ca(OH)_2(s)$ in pure water.

b. Calculate the molar solubility of $Ca(OH)_2$ in 0.10 M $Ca(NO_3)_2$.

c. In the box below, complete a particle representation diagram that includes four water molecules with proper
orientation around the Ca^{2+} ion.

Represent water molecules as .

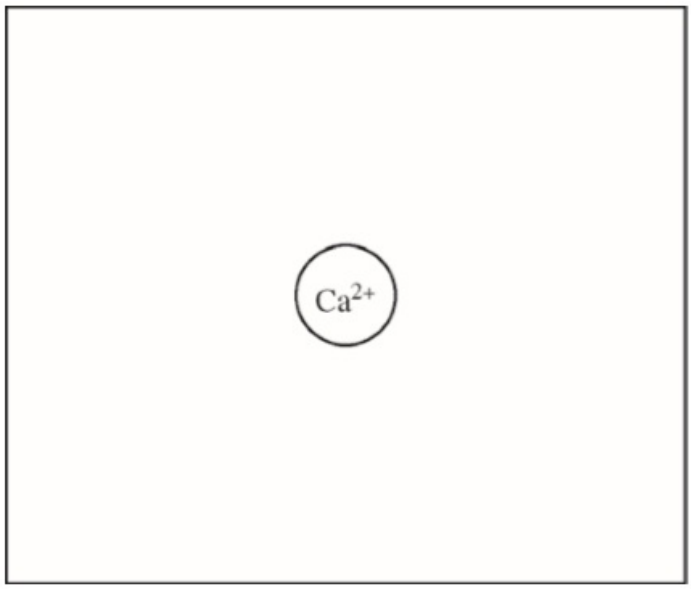

Part A

1 point is earned for the correct equation.

Ca(OH)2 ⇄ Ca2+ + 2 OH-

0	1 ✓

The student response earns one of the following points:

1 point is earned for the correct equation.

frq8

Ca(OH)2 ⇄ Ca2+ + 2 OH-

Part B

1 point is earned for the correct stoichiometry and setup.

Ksp = [Ca2+] [OH-]2

1.3 x 10-6 = (0.10 + *x*) (2*x*)2 ≈ (0.10) 4*x*2 [assuming *x* << 0.10]

1.3 x 10-5 = 4*x*2

x = 0.0018 *M*

1 point is earned for the final answer.

Molar solubility of Ca(OH)2 = 0.0018 *M*

0	1	2 ✓

The student response earns two of the following points:

1 point is earned for the correct stoichiometry and setup.

Ksp = [Ca2+] [OH-]2

1.3 x 10-6 = (0.10 + *x*) (2*x*)2 ≈ (0.10) 4*x*2 [assuming *x* << 0.10]

1.3 x 10-5 = 4*x*2

x = 0.0018 *M*

1 point is earned for the final answer.

Molar solubility of Ca(OH)2 = 0.0018 *M*

Part C

1 point is earned for a correct diagram that shows at least three of the four water molecules oriented as described.

frq8

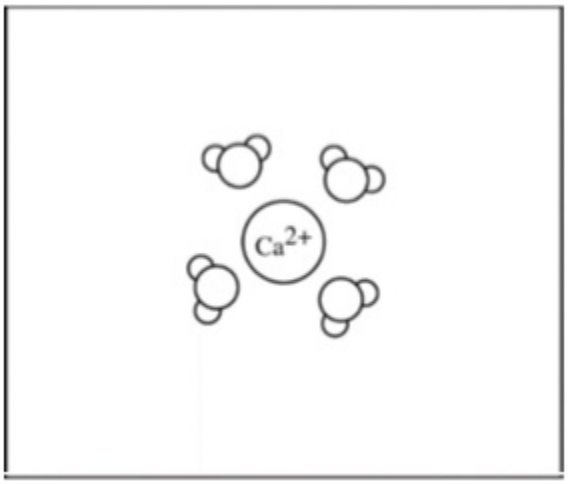

[The diagram should show the oxygen side of the water molecules oriented closer to the Ca2+ ion.]

0	1 ✓

The student response earns one of the following points:

1 point is earned for a correct diagram that shows at least three of the four water molecules oriented as described.

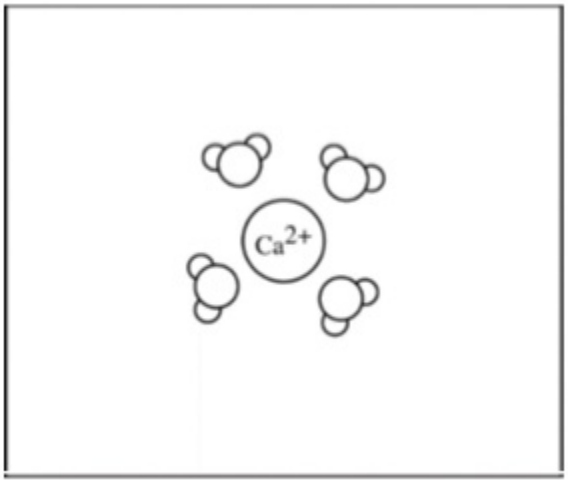

[The diagram should show the oxygen side of the water molecules oriented closer to the Ca2+ ion.]

frq8

3. For parts of the free response question that require calculations, clearly show the method used and the steps involved in arriving at your answers. You must show your work to receive credit for your answer. Examples and equations may be included in your answers where appropriate.

For parts of the free response question that require calculations, clearly show the method used and the steps involved in arriving at your answers. You must show your work to receive credit for your answer. Examples and equations may be included in your answers where appropriate.

A student is asked to prepare a buffer solution made with equimolar amounts of $CH_3NH_2(aq)$ and $CH_3NH_3Cl(s)$. The student uses $25.00\ \text{mL}$ of $0.100\ M\ CH_3NH_2(aq)$, which contains $0.00250\ \text{mol}$ of CH_3NH_2, to make the buffer.

(a) Calculate the mass of $CH_3NH_3Cl(s)$ that contains $0.00250\ \text{mol}$ of CH_3NH_3Cl.

The student has the following materials and equipment available.

• Distilled water	• Electronic balance	• $50\ \text{mL}$ beaker	• Pipets
• $0.100\ M\ CH_3NH_2(aq)$	• Weighing paper	• $10.0\ \text{mL}$ graduated cylinder	• pH meter
• Solid CH_3NH_3Cl	• $50.00\ \text{mL}$ buret	• Small spatula	

(b) The following table contains a partial procedure for making the buffer solution. Fill in steps 1 and 4 to complete the procedure using only materials and equipment selected from the choices given. (Not all materials listed will be used. Assume that all appropriate safety measures are already in place.)

frq8

Step	Procedure
1	
2	Place the solid in the 50mL beaker.
3	Clean the buret and rinse with distilled water.
4	
5	Use the buret to add 25.00mL of $0.100M\text{CH}_3\text{NH}_2(aq)$ to the beaker.
6	Mix well.
7	Check the pH with the pH meter.

The value of K_b for $\text{CH}_3\text{NH}_2(aq)$ is 4.4×10^{-4}, and the pH of the buffer the student prepared is 10.64.

(c) The student prepares a second buffer solution. The student uses $25.00\ \text{mL}$ of $0.050\ M\ \text{CH}_3\text{NH}_2(aq)$ instead of $25.00\ \text{mL}$ of $0.100\ M\ \text{CH}_3\text{NH}_2(aq)$, and half the mass of $\text{CH}_3\text{NH}_3\text{Cl}(s)$ that was used in the first buffer. Is the pH of the second buffer greater than, less than, or equal to the pH of the first buffer? Justify your answer.

Part A

Select a point value to view scoring criteria, solutions, and/or examples and to score the response.

0	1 ✓

The response provides the correct calculated value.

- $0.00250\text{ mol CH}_3\text{NH}_3\text{Cl} \times \frac{67.52\text{ g}}{1\text{ mol}} = 0.169\text{ g}$

Part B

Select a point value to view scoring criteria, solutions, and/or examples and to score the response.

frq8

0	1	2 ✓

The response meets **both** of the following criteria.

- ☐ The response provides a correct description of step 1.
  - Use the spatula, balance, and weighing paper to measure out exactly $0.169\ \text{g}$ of $CH_3NH_3Cl(s)$.

    OR

  - Use the balance to weigh out the mass of solid in part (a).
- ☐ The response provides a correct description of step 4.
  - Rinse the buret with a small amount of $0.100\ M\ CH_3NH_2(aq)$, drain, and refill with $0.100\ M\ CH_3NH_2(aq)$.

Part C

Select a point value to view scoring criteria, solutions, and/or examples and to score the response.

0	1 ✓

The response provides the correct answer and a valid justification.

- Equal to. The ratio of weak acid to conjugate base is still $1:1$.

frq8

4. Directions: For parts of the free-response question that require calculations, clearly show the method used and the steps involved in arriving at your answers. You must show your work to receive credit for your answer. Examples and equations may be included in your answers where appropriate.

Equimolar amounts of $Cl_2(g)$ and $CO(g)$ are injected into an evacuated, rigid container, where they react according to the equation below.

$$Cl_2(g) + CO(g) \rightleftarrows COCl_2(g) \qquad \Delta H^{\circ}_{rxn} = -109\,\text{kJ/mol}_{rxn}$$

(a) If 7.0 g of $CO(g)$ is consumed in the reaction with excess $Cl_2(g)$, how many moles of $COCl_2(g)$ are produced?

(b) Which element is oxidized in this reaction? Justify your answer in terms of oxidation numbers.

The partial pressures of the gases in the container are monitored at constant temperature and recorded in the table below.

Time	P_{Cl_2} (atm)	P_{CO} (atm)	P_{COCl_2} (atm)
t_0	1.0	1.0	0.0
t_1	0.78	0.78	0.22
t_2	0.62	0.62	0.38
t_3	0.51	0.51	0.49
t_4	0.45	0.45	0.55
t_5	0.42	0.42	0.58
t_6	0.41	0.41	0.59
t_7	0.40	0.40	0.60
t_8	0.40	0.40	0.60
t_9	0.40	0.40	0.60

(c) At time t_8, is the rate of the forward reaction greater than, less than, or equal to the rate of the reverse reaction? Justify your choice.

(d) At equilibrium, the container holds the most molecules of which gas, $Cl_2(g)$ or $COCl_2(g)$? Explain your answer.

frq8

(e) A student hypothesizes that if the temperature of the container is decreased after time t_9, the mole fraction of Cl_2 in the container will increase. Do you agree or disagree with the student's hypothesis? Justify your answer.

(f) Using the data in the table, determine the value of the equilibrium constant, K_p, for the reaction represented by the equation below.

$$Cl_2(g) + CO(g) \rightleftarrows COCl_2(g)$$

(g) Using the value determined in part (f), determine the value of $K_p\prime$ for the equation shown below.

$$3\,Cl_2(g) + 3\,CO(g) \rightleftarrows 3\,COCl_2(g) \qquad K_p\prime = ?$$

(h) Which gas, $Cl_2(g)$ or $COCl_2(g)$, will deviate most from the ideal gas law at low temperature? Justify your choice.

Part A

Select a point value to view scoring criteria, solutions, and/or examples and to score the response.

0	1 ✓

The response shows the correct calculation of the number of moles of $COCl_2$.

· $7.0\,\text{g CO} \times \frac{1\,\text{mol CO}}{28\,\text{g CO}} = 0.25\,\text{mol CO}$

$0.25\,\text{mol CO} \times \frac{1\,\text{mol COCl}_2}{1\,\text{mol CO}} = 0.25\,\text{mol COCl}_2$

Part B

Select a point value to view scoring criteria, solutions, and/or examples and to score the response.

0	1 ✓

The response provides both the element that is oxidized and a correct justification equivalent to the following.

· Carbon. Its oxidation number changes from $+2$ to $+4$.

Part C

Select a point value to view scoring criteria, solutions, and/or examples and to score the response.

frq8

0	1 ✓

The response provides the correct answer and a valid justification equivalent to the following.

· Equal to. The partial pressure of the product (or reactants) remains the same from time t_8 to t_9, indicating that the reaction has reached equilibrium.

Part D

Select a point value to view scoring criteria, solutions, and/or examples and to score the response.

0	1 ✓

The response provides both the correct answer and a valid justification equivalent to the following.

· $COCl_2$. At equilibrium (t_7, t_8, t_9) the partial pressure of $COCl_2$ is greatest and thus the number of molecules of $COCl_2$ is greatest.

Part E

Select a point value to view scoring criteria, solutions, and/or examples and to score the response.

0	1 ✓

The response provides both a correct answer and a valid justification equivalent to one of the following.

· Disagree. According to Le Châtelier's principle, the distribution of species will shift towards products when the temperature is decreased in an exothermic reaction. Therefore, the mole fraction of Cl_2 will decrease, not increase.

OR

· Agree. Decreasing the temperature of the constant-volume system would decrease the pressure in the container. According to Le Châtelier's principle, the distribution of species will shift towards the side with the greater number of moles. Therefore, the mole fraction of Cl_2 will increase.

Part F

Select a point value to view scoring criteria, solutions, and/or examples and to score the response.

frq8

0	1 ✓

The response shows the correct calculation of K_p.

· $K_p = \frac{P_{COCl_2}}{(P_{Cl_2})(P_{CO})} = \frac{0.60}{(0.40)(0.40)} = 3.75 \approx 3.8$

Part G

Select a point value to view scoring criteria, solutions, and/or examples and to score the response.

0	1 ✓

The response shows **one** of the following.

- [ ] $K_p' = \frac{(P_{COCl_2})^3}{(P_{Cl_2})^3(P_{CO})^3} = \frac{(0.60)^3}{(0.40)^3(0.40)^3} = 53$
- [ ] $K_p' = (K_p)^3 = (3.8)^3 = 55$ (53 if not rounded after part (f))

Part H

Select a point value to view scoring criteria, solutions, and/or examples and to score the response.

0	1 ✓

The response provides both the correct answer and a valid justification equivalent to the following.

· $COCl_2(g)$, is more likely to deviate from the ideal gas law. $Cl_2(g)$ has dispersion forces only, while $COCl_2(g)$ has dipole-dipole attractions in addition to stronger dispersion forces than $Cl_2(g)$ due to a larger and more polarizable electron cloud in $COCl_2(g)$. Therefore, $COCl_2(g)$ has stronger overall intermolecular forces.

frq8

5. Directions: For parts of the free-response question that require calculations, clearly show the method used and the steps involved in arriving at your answers. You must show your work to receive credit for your answer. Examples and equations may be included in your answers where appropriate.

Equimolar amounts of $Cl_2(g)$ and $O_2(g)$ are injected into an evacuated, rigid container, where they react according to the equation below.

$$2\,Cl_2(g) + O_2(g) \rightleftarrows 2\,Cl_2O(g) \qquad \Delta H^\circ_{rxn} = +161\ \text{kJ/mol}_{rxn}$$

(a) If 6.4 g of $O_2(g)$ is consumed in the reaction with excess $Cl_2(g)$, how many moles of $Cl_2O(g)$ are produced?

(b) Which element is oxidized in this reaction? Justify your answer in terms of oxidation numbers.

The partial pressures of the gases in the container are monitored at constant temperature and recorded in the table below.

Time	P_{Cl_2} (atm)	P_{O_2} (atm)	P_{Cl_2O} (atm)
t_0	0.50	0.50	0.0
t_1	0.42	0.46	0.08
t_2	0.36	0.43	0.14
t_3	0.32	0.41	0.19
t_4	0.29	0.39	0.22
t_5	0.27	0.38	0.23
t_6	0.26	0.37	0.24
t_7	0.25	0.38	0.25
t_8	0.25	0.38	0.25
t_9	0.25	0.38	0.25

(c) At time t_4, is the rate of the reverse reaction greater than, less than, or equal to the rate of the forward reaction? Justify your choice.

(d) At equilibrium, the container holds fewer molecules of which gas, $Cl_2(g)$ or $O_2(g)$? Explain your answer.

(e) A student hypothesizes that if the temperature of the container is decreased after time t_9, the mole fraction of $Cl_2O(g)$ in the container will increase. Do you agree or disagree with the student's hypothesis? Justify your answer.

(f) Using the data in the table, determine the value of the equilibrium constant, K_p, for the reaction represented by

frq8

the equation below.

$$2\,Cl_2(g) + O_2(g) \rightleftarrows 2\,Cl_2O(g)$$

(g) Using the value determined in part (f), determine the value of $K_p\prime$ for the equation shown below.

$$4\,Cl_2(g) + 2\,O_2(g) \rightleftarrows 4\,Cl_2O(g) \qquad K_p\prime = ?$$

(h) Which gas, $Cl_2(g)$ or $O_2(g)$, will deviate most from the ideal gas law at low temperature? Justify your choice.

Part A

Select a point value to view scoring criteria, solutions, and/or examples and to score the response.

0	1 ✓

The response shows the correct calculation of the number of moles of Cl_2O.

· $6.4\,g\,O_2 \times \frac{1\,mol\,O_2}{32\,g\,O_2} = 0.20\,mol\,O_2$

$0.20\,mol\,O_2 \times \frac{2\,mol\,Cl_2O}{1\,mol\,O_2} = 0.40\,mol\,Cl_2O$

Part B

Select a point value to view scoring criteria, solutions, and/or examples and to score the response.

0	1 ✓

The response provides both the element that is oxidized and a valid justification equivalent to the following.

· Chlorine. Its oxidation number changes from 0 to $+1$.

Part C

Select a point value to view scoring criteria, solutions, and/or examples and to score the response.

0	1 ✓

frq8

The response provides both the correct choice and a valid justification equivalent to one of the following.

· Less than. The partial pressures of the reactants decrease from time t_4 to time t_5, indicating that the reverse reaction is occurring at the lesser rate.

OR

· Less than. The partial pressure of Cl_2O continues to increase after time t_4, indicating that the forward reaction is proceeding at a greater rate.

Part D

Select a point value to view scoring criteria, solutions, and/or examples and to score the response.

0	1 ✓

The response provides both a correct answer and an explanation equivalent to the following.

· Cl_2. At equilibrium (t_7, t_8, t_9) the partial pressure of Cl_2 is lower than that of O_2, indicating that there are fewer molecules of Cl_2.

Part E

Select a point value to view scoring criteria, solutions, and/or examples and to score the response.

0	1 ✓

The response provides both the correct answer and a valid justification equivalent to the following.

· Disagree. According to Le Châtelier's principle, the distribution of species will shift towards reactants when the temperature is decreased in an endothermic reaction. Therefore, the mole fraction of Cl_2O will decrease, not increase.

Part F

Select a point value to view scoring criteria, solutions, and/or examples and to score the response.

0	1 ✓

The response shows the correct calculation of K_p.

· $K_p = \frac{(P_{Cl_2O})^2}{(P_{Cl_2})^2(P_{O_2})} = \frac{(0.25)^2}{(0.25)^2(0.38)} = 2.6$

frq8

Part G

Select a point value to view scoring criteria, solutions, and/or examples and to score the response.

0	1 ✓

The response shows **one** of the following.

- [ ] $K_p{}' = \frac{(P_{Cl_2O})^4}{(P_{Cl_2})^4(P_{O_2})^2} = \frac{(0.25)^4}{(0.25)^4(0.38)^2} = 6.9$
- [ ] $K_p{}' = (K_p)^2 = (2.6)^2 = 6.8$ (6.9 if not rounded after part (f))

Part H

Select a point value to view scoring criteria, solutions, and/or examples and to score the response.

0	1 ✓

The response provides both the correct answer and a valid justification equivalent to the following.

· $Cl_2(g)$ is more likely to deviate from the ideal gas law. $Cl_2(g)$ molecules have larger and more polarizable electron clouds than $O_2(g)$. Therefore, $Cl_2(g)$ has stronger overall intermolecular forces.

frq8

6. To spectrophotometrically determine the mass percent of cobalt in an ore containing cobalt and some inert materials, solutions with known $[Co^{2+}]$ are prepared and the absorbance of each of the solutions is measured at the wavelength of optimum absorbance. The data are used to create a calibration plot, shown below.

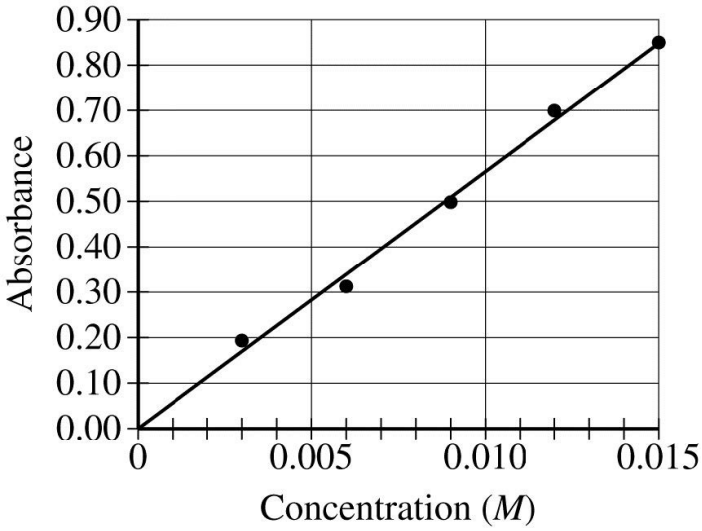

A 0.630 g sample of the ore is completely dissolved in concentrated $HNO_3(aq)$. The mixture is diluted with water to a final volume of 50.00 mL. Assume that all the cobalt in the ore sample is converted to $Co^{2+}(aq)$.

a. What is the $[Co^{2+}]$ in the solution if the absorbance of a sample of the solution is 0.74?

b. Calculate the number of moles of $Co^{2+}(aq)$ in the 50.00 mL solution.

c. Calculate the mass percent of Co in the 0.630 g sample of the ore.

Part A

1 point is earned for a concentration that is consistent with an absorbance of 0.74 on the graph.

An absorbance of 0.74 corresponds to a concentration of 0.0130 *M* (0.0125 *M* to 0.0135 *M*).

0	1 ✓

Student earns 1/1 point(s)

1 point is earned for a concentration that is consistent with an absorbance of 0.74 on the graph.

An absorbance of 0.74 corresponds to a concentration of 0.0130 *M* (0.0125 *M* to 0.0135 *M*).

Part B

1 point is earned for the correct calculation of the number of moles.

frq8

$$0.05000\text{L} \times \frac{0.0130\text{mol}\text{Co}^{2+}}{1.00\text{L}} = 6.50 \times 10^{-4}\text{mol}\text{Co}^{2+}$$

0	1 ✓

Student earns 1/1 point(s)

1 point is earned for the correct calculation of the number of moles.

$$0.05000\text{L} \times \frac{0.0130\text{mol}\text{Co}^{2+}}{1.00\text{L}} = 6.50 \times 10^{-4}\text{mol}\text{Co}^{2+}$$

Part C

1 point is earned for a correct calculation of the number of grams of Co that is consistent with the number of moles of Co2+ in part (b). (may be implicit)

1 point is earned for a correct calculation of the mass percent that is consistent

with the number of grams of Co.

$$6.50 \times 10^{-4}\text{mol} \times \frac{58.93\text{gCo}}{1.00\text{mol}} = 0.0383\text{gCo}$$
$$\frac{0.0383\text{gCo}}{0.630\text{g ore}} \times 100\% = 6.08\%\text{Co}$$

0	1	2 ✓

Student earns 2/2 point(s)

1 point is earned for a correct calculation of the number of grams of Co that is consistent with the number of moles of Co2+ in part (b). (may be implicit)

1 point is earned for a correct calculation of the mass percent that is consistent

with the number of grams of Co.

$$6.50 \times 10^{-4}\text{mol} \times \frac{58.93\text{gCo}}{1.00\text{mol}} = 0.0383\text{gCo}$$
$$\frac{0.0383\text{gCo}}{0.630\text{g ore}} \times 100\% = 6.08\%\text{Co}$$

frq8

7. **Directions:** Examples and equations may be included in your responses where appropriate. For calculations, clearly show the method used and the steps involved in arriving at your answers. You must show your work to receive credit for your answer. Pay attention to significant figures.

A student has 100. mL of 0.400 M $CuSO_4(aq)$ and is asked to make 100. mL of 0.150 M $CuSO_4(aq)$ for a spectrophotometry experiment. The following laboratory equipment is available for preparing the solution: centigram balance, weighing paper, funnel, 10 mL beaker, 150 mL beaker, 50 mL graduated cylinder, 100 mL volumetric flask, 50 mL buret, and distilled water.

(a) Calculate the volume of 0.400 M $CuSO_4(aq)$ required for the preparation.

(b) Briefly describe the essential steps to most accurately prepare the 0.150 M $CuSO_4(aq)$ from the 0.400 M $CuSO_4(aq)$ using the equipment listed above.

The student plans to conduct a spectrophotometric analysis to determine the concentration of $Cu^{2+}(aq)$ in a solution. The solution has a small amount of $Co(NO_3)_2(aq)$ present as a contaminant. The student is given the diagram below, which shows the absorbance curves for aqueous solutions of $Co^{2+}(aq)$ and $Cu^{2+}(aq)$.

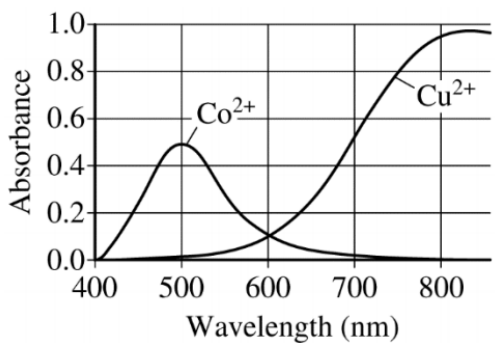

(c) The spectrophotometer available to the student has a wavelength range of 400 nm to 700 nm. What wavelength should the student use to minimize the interference from the presence of the $Co^{2+}(aq)$ ions?

Part A

1 point(s) maximum

1 point is earned for the correct volume.

$M_1V_1 = M_2V_2$

$V_2 = (0.150M)(0.100L) / 0.400M$

$V_2 = 0.0375\ L \times (1000\ mL/1L) = 37.5\ mL$

0	1 ✓

frq8

Student response earns 1 of the following 1 point(s)

1 point(s) maximum

1 point is earned for the correct volume.

$M_1V_1 = M_2V_2$

$V_2 = (0.150M)(0.100L) / 0.400M$

$V_2 = 0.0375$ L x (1000 mL/1L) = 37.5 mL

Part B

2 point(s) maximum

1 point is earned for using the buret to measure 37.5 mL of 0.400 M $CuSO_4$ solution.

1 point is earned for adding the $CuSO_4$ solution to the volumetric flask and filling to the mark with distilled water.

Use the buret to dispense 37.5 mL of $CuSO_4$ solution into the volumetric flask. Fill to the mark with distilled water.

0	1	✓ 2

Student response earns 2 of the following 2 point(s)

2 point(s) maximum

1 point is earned for using the buret to measure 37.5 mL of 0.400 M $CuSO_4$ solution.

1 point is earned for adding the $CuSO_4$ solution to the volumetric flask and filling to the mark with distilled water.

Use the buret to dispense 37.5 mL of $CuSO_4$ solution into the volumetric flask. Fill to the mark with distilled water.

Part C

1 point(s) maximum

1 point is earned for a correct wavelength.

700 nm (Any wavelength from 650 to 700 nm is acceptable.)

0	✓ 1

frq8

Student response earns 1 of the following 1 point(s)

1 point(s) maximum

1 point is earned for a correct wavelength.

700 nm (Any wavelength from 650 to 700 nm is acceptable.)

frq8

8. **Directions: For parts of the free-response question that require calculations, clearly show the method used and the steps involved in arriving at your answers. You must show your work to receive credit for your answer. Examples and equations may be included in your answers where appropriate.**

Equimolar amounts of $F_2(g)$ and $O_2(g)$ are placed in a previously evacuated rigid container, where they react according to the equation below.

$$2F_2(g) + O_2(g) \rightleftarrows 2OF_2(g) \qquad \Delta H^{\circ}_{rxn} = +49.4\,\text{kJ/mol}_{rxn}$$

(a) If 3.8 g of $F_2(g)$ is consumed in the reaction, how many moles of $O_2(g)$ will be needed?

(b) Which element is reduced in this reaction? Justify your answer in terms of oxidation numbers.

The partial pressures of the gases in the container are monitored at constant temperature and recorded in the table below.

Time	P_{F_2} (atm)	P_{O_2} (atm)	P_{OF_2} (atm)
t_0	1.0	1.0	0.0
t_1	0.79	0.90	0.21
t_2	0.62	0.81	0.38
t_3	0.50	0.75	0.50
t_4	0.41	0.71	0.59
t_5	0.37	0.69	0.63
t_6	0.35	0.68	0.65
t_7	0.34	0.67	0.66
t_8	0.33	0.67	0.67
t_9	0.33	0.67	0.67

(c) At time t_2, is the rate of the forward reaction greater than, less than, or equal to the rate of the reverse reaction? Justify your choice.

(d) At equilibrium, the container holds fewer molecules of which gas, $F_2(g)$ or $O_2(g)$? Explain your answer.

(e) A student hypothesizes that if the temperature of the container is increased after time t_9, the mole fraction of OF_2 in the container will increase. Do you agree or disagree with the student's hypothesis? Justify your answer.

(f) Using the data in the table, determine the value of the equilibrium constant, K_p, for the reaction represented by the equation below.

frq8

$$2\,F_2(g) + O_2(g) \rightleftarrows 2\,OF_2(g)$$

(g) Using the value determined in part (f), determine the value of $K_p\prime$ for the equation shown below.

$$2\,OF_2(g) \rightleftarrows 2\,F_2(g) + O_2(g) \qquad K_p\prime = ?$$

(h) Which gas, $F_2(g)$ or $OF_2(g)$, will behave most like an ideal gas at low temperature? Justify your choice.

Part A

Select a point value to view scoring criteria, solutions, and/or examples and to score the response.

0	1 ✓

The response shows the correct calculation of the number of moles of O_2.

· $3.8\,g\,F_2 \times \frac{1\,mol\,F_2}{38\,g\,F_2} = 0.10\,mol\,F_2$

$0.10\,mol\,F_2 \times \frac{1\,mol\,O_2}{2\,mol\,F_2} = 0.050\,mol\,O_2$

Part B

Select a point value to view scoring criteria, solutions, and/or examples and to score the response.

0	1 ✓

The response both the correct answer and a valid justification equivalent to the following.

· Fluorine. Its oxidation number changes from 0 to -1.

Part C

Select a point value to view scoring criteria, solutions, and/or examples and to score the response.

0	1 ✓

The response provides the correct answer and a valid justification equivalent to one of the following.

· Greater than. The partial pressure of the product increases from time t_2 to t_3, indicating that the forward reaction is

frq8

occurring at a greater rate than the reverse reaction.

OR

· Greater than. The partial pressures of the reactants decrease from time t_2 to t_3, indicating that the forward reaction is occurring at a greater rate than the reverse reaction.

Part D

Select a point value to view scoring criteria, solutions, and/or examples and to score the response.

0	1 ✓

The response provides both the correct answer and a valid justification equivalent to the following.

· F_2. At equilibrium ($t_7,\ t_8,\ t_9$) the partial pressure of F_2 is lowest, and thus the number of molecules of F_2 is lowest.

Part E

Select a point value to view scoring criteria, solutions, and/or examples and to score the response.

0	1 ✓

The response provides both the correct answer and a valid justification equivalent to the following.

· Agree. According to Le Châtelier's principle, the distribution of species will shift towards products when the temperature is increased in an endothermic reaction. Therefore, the mole fraction of OF_2 will increase.

Part F

Select a point value to view scoring criteria, solutions, and/or examples and to score the response.

0	1 ✓

The response shows the correct calculation of K_p.

· $K_p = \frac{(P_{OF_2})^2}{(P_{F_2})^2(P_{O_2})} = \frac{(0.67)^2}{(0.33)^2(0.67)} = 6.2$

Part G

Select a point value to view scoring criteria, solutions, and/or examples and to score the response.

frq8

0	1 ✓

The response shows **one** of the following.

- [ ] $K_p{}' = \frac{(P_{\mathrm{F}_2})^2(P_{O_2})}{(P_{\mathrm{OF}_2})^2} = \frac{(0.33)^2(0.67)}{(0.67)^2} = 0.16$
- [ ] $K_p{}' = \frac{1}{K_p} = \frac{1}{6.2} = 0.16$

Part H

Select a point value to view scoring criteria, solutions, and/or examples and to score the response.

0	1 ✓

The response provides both the correct answer and a valid justification equivalent to the following.

· $\mathrm{F}_2(g)$ will behave more like an ideal gas. F_2 has dispersion forces only, while OF_2 has dipole-dipole attractions as well as stronger dispersion forces, due to a larger and more polarizable electron cloud. Therefore, F_2 molecules have weaker overall intermolecular forces than OF_2.

frq8

9. For parts of the free-response question that require calculations, clearly show the method used and the steps involved in arriving at your answers. You must show your work to receive credit for your answer. Examples and equations may be included in your answers where appropriate.

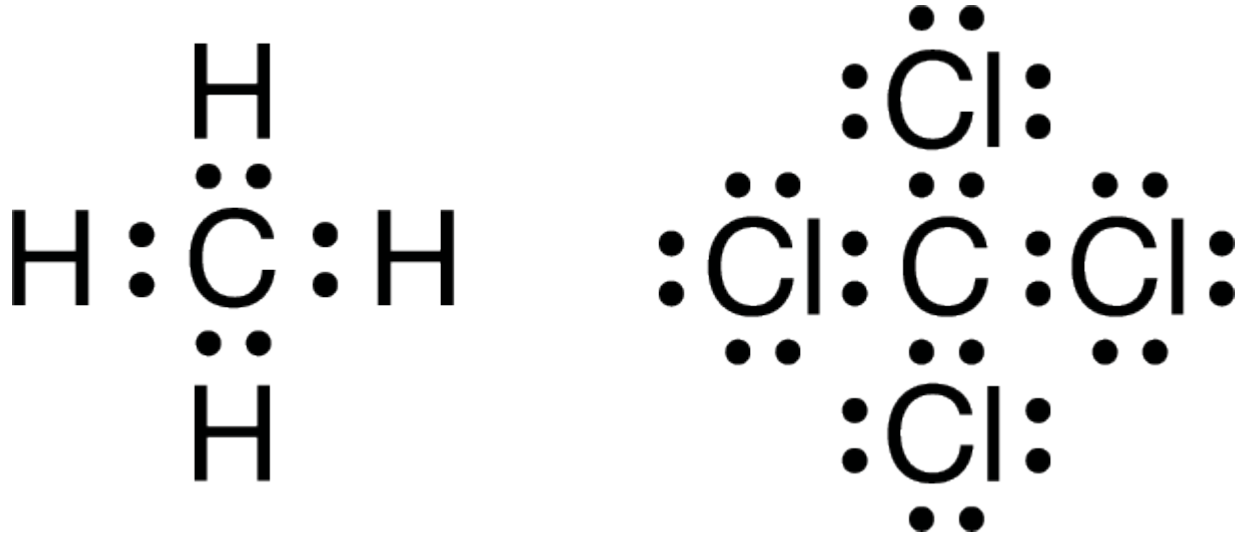

Answer the following questions about CH_4 and CCl_4. The Lewis electron-dot diagrams for molecules of the compounds are shown above.

(a) Which compound has the higher boiling point? Justify your answer. The type(s) of intermolecular force(s) in both substances should be included in your answer.

(b) At $400\ \text{K}$ both compounds are gases. At this temperature, which compound, $CH_4(g)$ or $CCl_4(g)$, behaves more like an ideal gas? Justify your answer, including reasoning about both molecules.

(c) $CCl_4(l)$ is placed in a previously evacuated container at 30°C, and some of the $CCl_4(l)$ evaporates. In the box below, draw a particulate diagram to show the species in the container after some of the $CCl_4(l)$ has evaporated. The phases of the species should be indicated by the spacing and distribution of the particles in the diagram. Some of the species shown in the legend will not be used.

frq8

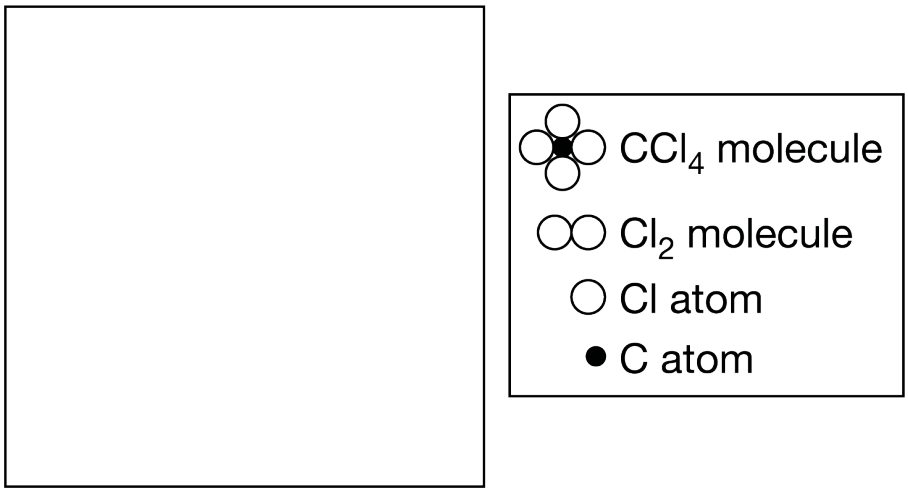

Part (a)

Select a point value to view scoring criteria, solutions, and/or examples and to score the response.

0	1	2 ✓

The response meets both of the criteria below:

- ☐ The response indicates that both compounds have London dispersion forces. (If the response indicates that either of the compounds has any other type of intermolecular force, the criterion is not met.)
- ☐ The response indicates that CCl_4 has the higher boiling point and that it has greater intermolecular forces.

Part (b)

Select a point value to view scoring criteria, solutions, and/or examples and to score the response.

0	1 ✓

The response meets both of the criteria below:

- ☐ The response indicates that CH_4 behaves more like an ideal gas.
- ☐ The response indicates that CCl_4 has greater intermolecular forces, OR that the CCl_4 molecules are more attracted to each other, OR that CCl_4 has a larger electron cloud.

Part (c)

frq8

Select a point value to view scoring criteria, solutions, and/or examples and to score the response.

0	1 ✓

The drawing meets all of the criteria below:

- [ ] There are closely spaced CCl_4 undefined molecules near the bottom of the box.
- [ ] There are more widely spaced CCl_4 undefined molecules in the box.
- [ ] There are no separate Cl_2 undefined molecules, Cl undefined atoms, or C undefined atoms in the box.

frq8

10. For parts of the free-response question that require calculations, clearly show the method used and the steps involved in arriving at your answers. You must show your work to receive credit for your answer. Examples and equations may be included in your answers where appropriate.

A student is given a sample of $CuSO_4(s)$ that contains a solid impurity that is soluble and colorless. The student wants to determine the amount of $CuSO_4$ in the sample and decides to use a spectrophotometer. First, the student prepares a calibration graph by measuring the absorbances of $CuSO_4(aq)$ solutions of known concentrations. The graph is shown below.

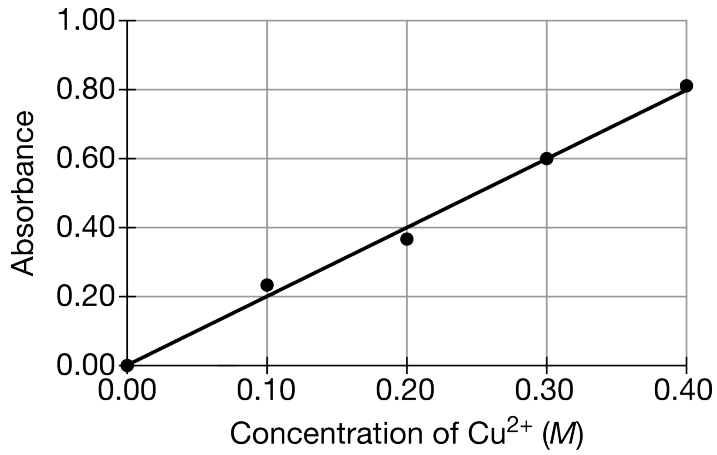

(a) The student dissolves the entire impure sample of $CuSO_4(s)$ in enough distilled water to make $100.\ mL$ of solution. Then the student measures the absorbance of the solution and observes that it is 0.30. Determine the concentration of $CuSO_4(aq)$ in the solution.

(b) Calculate the number of moles of $CuSO_4$ that were in the impure sample of $CuSO_4(s)$.

(c) In addition to the number of moles of $CuSO_4$ calculated in part (b), what other quantity must be measured in order to calculate the mass percentage of $CuSO_4$ in the impure sample of $CuSO_4(s)$?

(d) A particulate drawing of a single Cu^{2+} ion is shown in the following box. Draw <u>two</u> H_2O molecules in the box to show the most likely orientation of $H_2O(l)$ molecules around the Cu^{2+} ion.

frq8

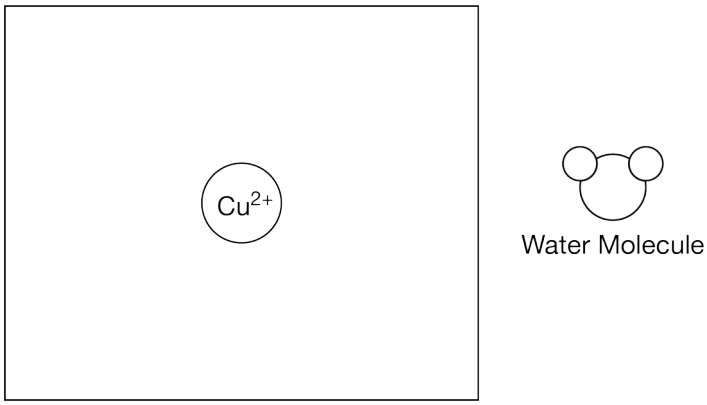

Part (a)

Select a point value to view scoring criteria, solutions, and/or examples and to score the response.

0	1 ✓

The response indicates that the absorbance is $0.15\ M$. (Unit not required. Any value from $0.14\ M$ to $0.16\ M$ is acceptable.)

Part (b)

Select a point value to view scoring criteria, solutions, and/or examples and to score the response. If an incorrect molarity from part (a) is used correctly, credit is earned.

0	1 ✓

The response gives the following calculation (or an equivalent): Unit not required.

$\frac{0.15\ \text{mol}}{1000\ \text{mL}} \times 100.\ \text{mL} = 0.015\ \text{mol}$

Part (c)

Select a point value to view scoring criteria, solutions, and/or examples and to score the response.

0	1 ✓

frq8

The response indicates that the mass of the sample must be measured.

Part (d)

Select a point value to view scoring criteria, solutions, and/or examples and to score the response.

0	1 ✓

The drawing shows two water molecules generally oriented so the large circle (indicating oxygen) is closer to the Cu^{2+} ion than the two small circles.

frq8

11. Directions: For parts of the free-response question that require calculations, clearly show the method used and the steps involved in arriving at your answers. You must show your work to receive credit for your answer. Examples and equations may be included in your answers where appropriate.

Equimolar amounts of $H_2(g)$ and $Br_2(g)$ are injected into an evacuated, rigid container, where they react according to the equation below.

$$H_2(g) + Br_2(g) \rightleftarrows 2\,HBr(g) \qquad \Delta H^{\circ}_{rxn} = -72.4\,\text{kJ/mol}_{rxn}$$

(a) If 1.6 g of Br_2 is consumed in the reaction with excess H_2, how many moles of HBr are produced?

(b) Which element is reduced in this reaction? Justify your answer in terms of the oxidation numbers.

The partial pressures of the gases in the container are monitored at constant temperature and recorded in the table below.

Time	P_{H_2} (atm)	P_{Br_2} (atm)	P_{HBr} (atm)
t_0	1.0	1.0	0.0
t_1	0.78	0.78	0.44
t_2	0.62	0.62	0.76
t_3	0.51	0.51	0.98
t_4	0.45	0.45	1.10
t_5	0.42	0.42	1.17
t_6	0.41	0.41	1.19
t_7	0.40	0.40	1.20
t_8	0.40	0.40	1.20
t_9	0.40	0.40	1.20

(c) At time t_9, is the rate of the forward reaction greater than, less than, or equal to the rate of the reverse reaction? Justify your choice.

(d) At equilibrium, the container holds the most molecules of which gas, H_2, Br_2, or HBr? Explain your answer.

(e) A student hypothesizes that if the temperature of the container is decreased after time t_9, the mole fraction of HBr in the container will decrease. Do you agree or disagree with the student's hypothesis? Justify your answer.

(f) Using the data in the table, determine the value of the equilibrium constant, K_p, for the reaction represented by the equation below.

frq8

$$H_2(g) + Br_2(g) \rightleftarrows 2\,HBr(g)$$

(g) Using the value determined in part (f), determine the value of $K_p\prime$ for the equation shown below.

$$2\,H_2(g) + 2\,Br_2(g) \rightleftarrows 4\,HBr(g) \qquad K_p\prime = ?$$

(h) Which gas, $Br_2(g)$ or $H_2(g)$, will behave most like an ideal gas at low temperature? Justify your choice.

Part A

Select a point value to view scoring criteria, solutions, and/or examples and to score the response.

0	1 ✓

The response shows the correct calculation of the number of moles of HBr.

· $1.6\,g\,Br_2 \times \frac{1\,mol\,Br_2}{160\,g\,Br_2} = 0.010\,mol\,Br_2$

$0.010\,mol\,Br_2 \times \frac{2\,mol\,HBr}{1\,mol\,Br_2} = 0.020\,mol\,HBr$

Part B

Select a point value to view scoring criteria, solutions, and/or examples and to score the response.

0	1 ✓

The response provides both the correct answer and a valid justification equivalent to the following.

· Bromine. Its oxidation number changes from 0 to -1.

Part C

Select a point value to view scoring criteria, solutions, and/or examples and to score the response.

0	1 ✓

The response provides both the correct answer and a valid justification equivalent to the following.

· Equal to. The partial pressure of the product (or reactants) remains the same from time t_8 to t_9, indicating that the

frq8

reaction is at equilibrium.

Part D

Select a point value to view scoring criteria, solutions, and/or examples and to score the response.

0	1 ✓

The response provides both the correct answer and a valid justification equivalent to the following.

· HBr. At equilibrium ($t_7,\ t_8,\ t_9$) the partial pressure of HBr is greatest, and thus the number of molecules of HBr is greatest.

Part E

Select a point value to view scoring criteria, solutions, and/or examples and to score the response.

0	1 ✓

The response provides both the correct answer and a valid justification equivalent to the following.

· Disagree. According to Le Châtelier's principle, the distribution of species will shift towards products when the temperature is decreased in an exothermic reaction. Therefore, the mole fraction of HBr will increase, not decrease.

Part F

Select a point value to view scoring criteria, solutions, and/or examples and to score the response.

0	1 ✓

The response shows the correct calculation of K_p.

· $K_p = \frac{(P_{\mathrm{HBr}})^2}{(P_{\mathrm{H_2}})(P_{\mathrm{Br_2}})} = \frac{(1.20)^2}{(0.40)(0.40)} = 9.0$

Part G

Select a point value to view scoring criteria, solutions, and/or examples and to score the response.

frq8

0	1 ✓

The response shows **one** of the following.

- [ ] $K_p{}' = \frac{(P_{\mathrm{HBr}})^4}{(P_{\mathrm{H_2}})^2(P_{\mathrm{Br_2}})^2} = \frac{(1.20)^4}{(0.40)^2(0.40)^2} = 81$
- [ ] $K_p{}' = (K_p)^2 = (9.0)^2 = 81$

Part H

Select a point value to view scoring criteria, solutions, and/or examples and to score the response.

0	1 ✓

The response provides both the correct answer and a valid justification equivalent to the following.

· $\mathrm{H_2}(g)$ will behave more like an ideal gas. $\mathrm{H_2}$ has a smaller and less polarizable electron cloud, it has weaker London dispersion forces than $\mathrm{Br_2}$. Therefore, $\mathrm{H_2}$ molecules have weaker overall intermolecular forces than $\mathrm{Br_2}$.

frq8

12. For parts of the free response question that require calculations, clearly show the method used and the steps involved in arriving at your answers. You must show your work to receive credit for your answer. Examples and equations may be included in your answers where appropriate.

For parts of the free response question that require calculations, clearly show the method used and the steps involved in arriving at your answers. You must show your work to receive credit for your answer. Examples and equations may be included in your answers where appropriate.

HCl is a molecular gas as a pure substance but acts as an acid in aqueous solution.

(a) A sample of $\mathrm{HCl}(g)$ is stored in a rigid $6.00\ \mathrm{L}$ container at $7.45\ \mathrm{atm}$ and $296\ \mathrm{K}$.

(i) Calculate the number of moles of $\mathrm{HCl}(g)$ in the container.

(ii) The rigid $6.00\ \mathrm{L}$ container of $\mathrm{HCl}(g)$ is cooled to a temperature of $271\ \mathrm{K}$. Calculate the new pressure, in atm, of the $\mathrm{HCl}(g)$.

(b) When HCl ionizes in aqueous solution, $\mathrm{Cl}^-(aq)$ ions are formed. In the following box, draw <u>three</u> water molecules with proper orientation around the Cl^- ion. Use to represent water molecules.

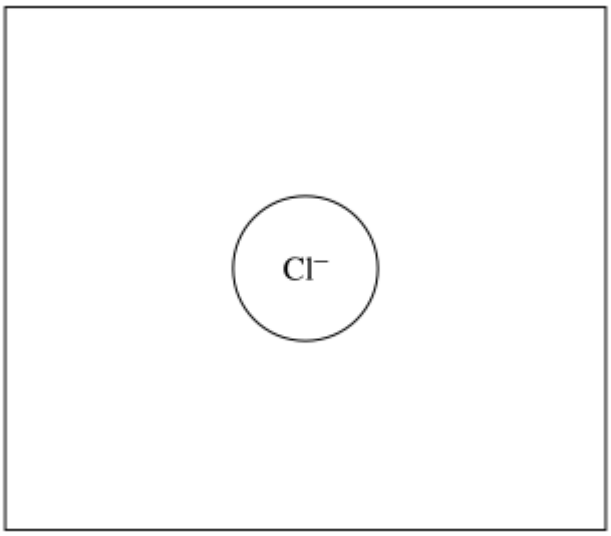

frq8

Acid (HA)	Anion (A^-)	K_a Value
HNO_2	$NO_2{}^-$	5.6×10^{-4}
HCl	Cl^-	2.0×10^{7}
$HClO_4$	$ClO_4{}^-$	1.6×10^{15}

The K_a values for three acids are shown in the preceding table.

(c) The following particulate diagram represents the ionization of one of the acids in the data table. Water molecules have been omitted for clarity. Which acid (HNO_2, HCl, or $HClO_4$) is represented in the diagram? Justify your answer using the information in the table.

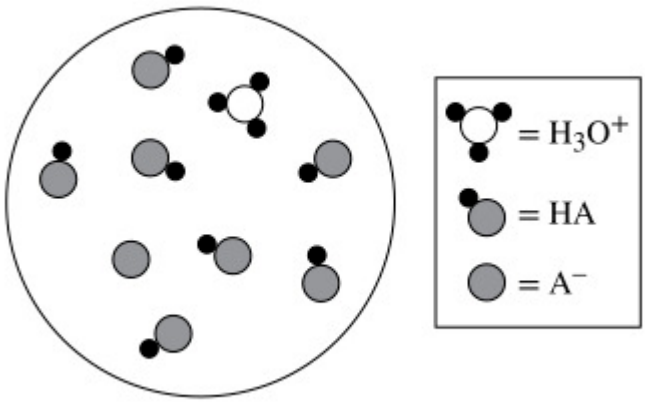

Part A(i)

Select a point value to view scoring criteria, solutions, and/or examples and to score the response.

0	1 ✓

The response provides the correct calculated value.

- $n = \frac{PV}{RT} = \frac{(7.45\text{ atm})(6.00\text{ L})}{(0.08206\frac{\text{L}\cdot\text{atm}}{\text{mol}\cdot\text{K}})(296\text{ K})} = 1.84\text{ mol}$

Part A(ii)

Select a point value to view scoring criteria, solutions, and/or examples and to score the response.

frq8

0	1 ✓

The response provides the correct calculated value.

- $\frac{P_1}{T_1} = \frac{P_2}{T_2}$

  $P_2 = \frac{(P_1)(T_2)}{T_1} = \frac{(7.45\text{ atm})(271\text{ K})}{296\text{ K}} = 6.82\text{ atm}$

  OR

- $P = \frac{nRT}{V} = \frac{(1.84\text{ mol})(0.08206\frac{\text{L}\cdot\text{atm}}{\text{mol}\cdot\text{K}})(271\text{ K})}{6.00\text{ L}} = 6.82\text{ atm}$

Part B

Select a point value to view scoring criteria, solutions, and/or examples and to score the response.

0	1 ✓

The response provides a correct drawing.

- The drawing should show three water molecules with a hydrogen atom (dark circle) oriented towards the Cl^- ion. See example below.

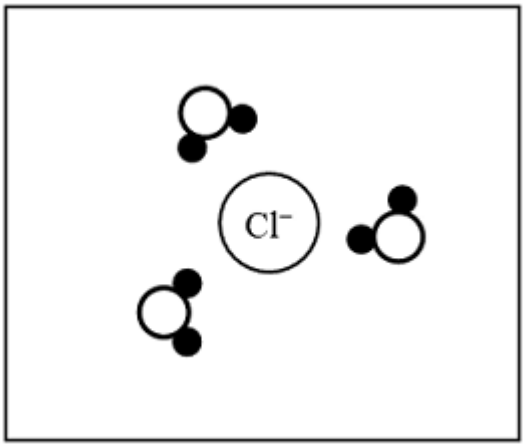

Part C

Select a point value to view scoring criteria, solutions, and/or examples and to score the response.

frq8

0	1 ✓

The response provides the correct answer and a valid justification.

- HNO_2. The diagram shows most of the molecules in their un-ionized form, indicating a weak acid with a K_a value less than 1, which is consistent with HNO_2.

frq8

13. A student wants to determine the concentration of permanganate, $MnO_4^-(aq)$, in a solution. The student plans to use colorimetric analysis because solutions containing $MnO_4^-(aq)$ have a purple color.

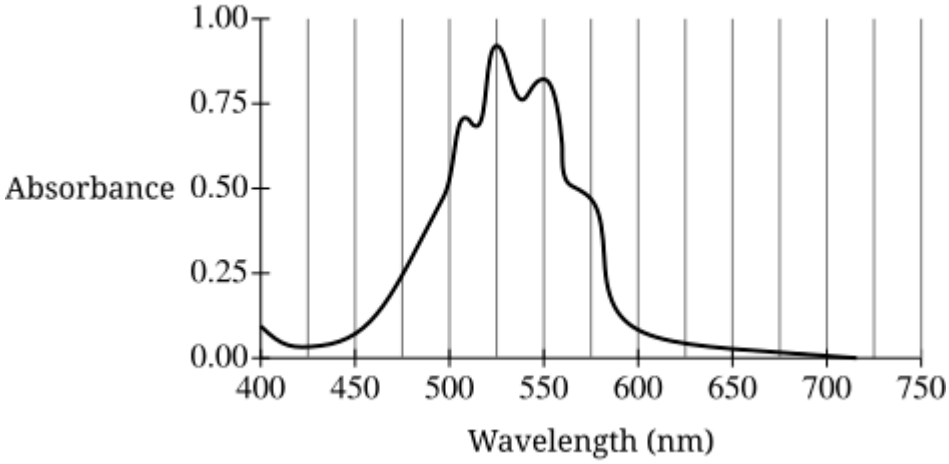

(a) To determine the optimum wavelength for an experiment that measures the concentration of $MnO_4^-(aq)$, the student takes a sample of the solution and measures the amount of light absorbed by the sample over a range of wavelengths. The data are plotted in the graph shown. Identify the optimum wavelength that the student should use for the experimental procedure.

(b) The student uses a stock solution of $2.40 \times 10^{-3}\ M\ KMnO_4(aq)$ to prepare the standard solutions of $MnO_4^-(aq)$ that are needed to construct a calibration curve.

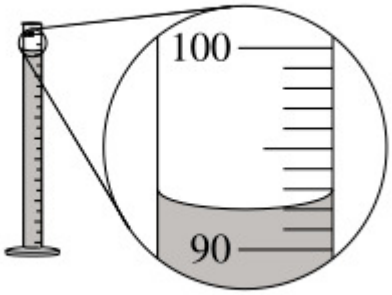

(i) The student uses a $100.0\ mL$ graduated cylinder to measure a certain volume of $KMnO_4(aq)$ stock solution, as shown in the diagram given. What volume should the student record?
(ii) Calculate the volume, in mL, of $2.40 \times 10^{-3}\ M\ KMnO_4(aq)$ that is required to produce $100.0\ mL$

frq8

of a standard $1.68 \times 10^{-3}\ M\ \mathrm{MnO_4}^-(aq)$ solution.

The student designs the following procedure to produce a calibration curve.

Step 1: Prepare several standard solutions that have known $\mathrm{MnO_4}^-(aq)$ concentrations by dilution of the stock solution.
Step 2: Rinse the cuvette with distilled water.
Step 3: Rinse the cuvette with the standard solution and fill the cuvette with the standard solution.
Step 4: Measure the absorbance of the standard solution with the colorimeter.
Step 5: Repeat steps 2-4 for each of the standard solutions.

The data are plotted in the calibration curve shown. One of the data points (indicated with an arrow) on the calibration curve is below the line of best fit.

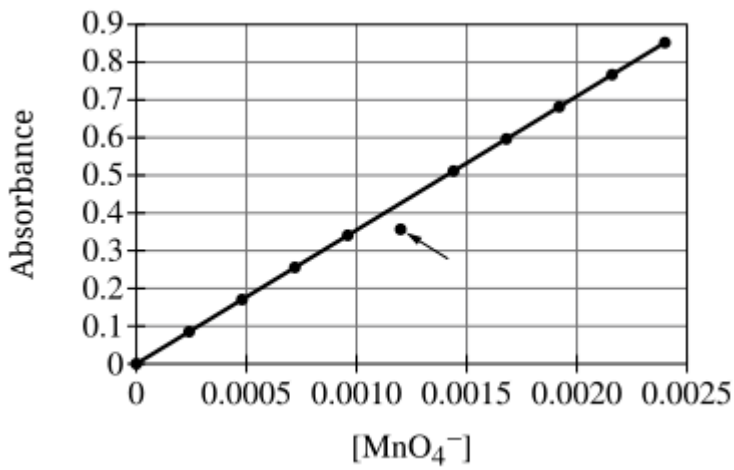

(c) Assuming that all lab equipment is functioning properly, identify which one of the procedural steps the student could have executed incorrectly that would explain why the marked data point is below the line of best fit. Justify your answer.

Part A

Select a point value to view scoring criteria, solutions, and/or examples and to score the response.

0	1 ✓

The response provides the correct answer.

- 525 nm

Part B(i)

frq8

Select a point value to view scoring criteria, solutions, and/or examples and to score the response.

0	1 ✓

The response provides the correct answer.

- $92.0\ \mathrm{mL}$

Part B(ii)

Select a point value to view scoring criteria, solutions, and/or examples and to score the response.

0	1 ✓

The response provides the correct calculated value.

- $V_1 = \frac{M_2V_2}{M_1} = \frac{(1.68\times10^{-3}\ M)(100.0\ \mathrm{mL})}{(2.40\times10^{-3}\ M)} = 70.0\ \mathrm{mL}$

Part C

Select a point value to view scoring criteria, solutions, and/or examples and to score the response.

0	1 ✓

The response provides the correct answer and a valid justification.

- The student could have improperly executed step 3. If the cuvette was not rinsed with the standard solution prior to being filled for the measurement of absorbance, the standard solution would be diluted by the remaining distilled water, and the absorbance would be lower than what it should be.

frq8

14. For parts of the free-response question that require calculations, clearly show the method used and the steps involved in arriving at your answers. You must show your work to receive credit for your answer. Examples and equations may be included in your answers where appropriate.

A student is doing experiments with $CO_2(g)$. Originally, a sample of the gas is in a rigid container at $299\ \mathrm{K}$ and $0.70\ \mathrm{atm}$. The student increases the temperature of the $CO_2(g)$ in the container to $425\ \mathrm{K}$.

(a) Describe the effect of raising the temperature on the motion of the $CO_2(g)$ molecules.

(b) Calculate the pressure of the $CO_2(g)$ in the container at $425\ \mathrm{K}$.

(c) In terms of kinetic molecular theory, briefly explain why the pressure of the $CO_2(g)$ in the container changes as it is heated to $425\ \mathrm{K}$.

(d) The student measures the actual pressure of the $CO_2(g)$ in the container at $425\ \mathrm{K}$ and observes that it is less than the pressure predicted by the ideal gas law. Explain this observation.

Part A

Select a point value to view scoring criteria, solutions, and/or examples and to score the response.

0	1 ✓

The response indicates that the average speed of the molecules increases as temperature increases.

Part B

Select a point value to view scoring criteria, solutions, and/or examples and to score the response.

0	1 ✓

The response shows a calculation similar to the following.

$$\frac{P_1}{T_1} = \frac{P_2}{T_2} \Rightarrow \frac{0.70\ \mathrm{atm}}{299\ \mathrm{K}} = \frac{P_2}{425\ \mathrm{K}} \Rightarrow P_2 = 0.99\ \mathrm{atm}$$

Part C

Select a point value to view scoring criteria, solutions, and/or examples and to score the response.

frq8

0	1 ✓

The response meets one or both of the following criteria.

- [ ] · The response indicates that faster-moving gas particles collide more frequently with the walls of the container, thus increasing the pressure.
- [ ] · The response indicates that faster-moving gas particles collide more forcefully with the walls of the container, thus increasing the pressure.

Part D

Select a point value to view scoring criteria, solutions, and/or examples and to score the response.

0	1 ✓

The response indicates that the attractive forces between CO_2 molecules result in a pressure that is lower than that predicted by the ideal gas law.

frq8

15. For parts of the free response question that require calculations, clearly show the method used and the steps involved in arriving at your answers. You must show your work to receive credit for your answer. Examples and equations may be included in your answers where appropriate.

For parts of the free response question that require calculations, clearly show the method used and the steps involved in arriving at your answers. You must show your work to receive credit for your answer. Examples and equations may be included in your answers where appropriate.

To determine the value of the solubility product constant, K_{sp}, a student prepares a saturated solution by dissolving $\mathrm{Ba(OH)_2}(s)$ in water. The K_{sp} expression is $K_{sp} = \left[\mathrm{Ba^{2+}}\right]\left[\mathrm{OH^-}\right]^2$.

(a) Write the balanced equation for the dissociation reaction that is consistent with the K_{sp} expression.

(b) The student determines that the solubility of $\mathrm{Ba(OH)_2}(s)$ is $18.5 \quad \mathrm{g/L}$ at $25^\circ\mathrm{C}$.

(i) Calculate the molar solubility of $\mathrm{Ba(OH)_2}(s)$ in $\mathrm{mol/L}$ at $25^\circ\mathrm{C}$.

(ii) Calculate the value of K_{sp} for $\mathrm{Ba(OH)_2}(s)$ at $25^\circ\mathrm{C}$.

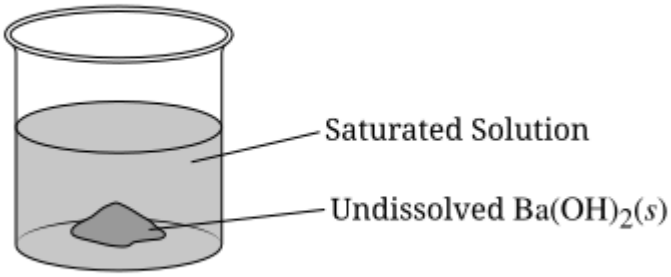

(c) The student creates a saturated solution of $\mathrm{Ba(OH)_2}$ in water, as shown in the diagram. The student claims that the amount of undissolved $\mathrm{Ba(OH)_2}(s)$ will decrease when $\mathrm{HNO_3}(aq)$ is added. Do you agree or disagree with the student's claim? Justify your answer with a comparison of Q and K_{sp}.

Part A

Select a point value to view scoring criteria, solutions, and/or examples and to score the response.

frq8

0	1 ✓

The response provides the correct balanced equation (state symbols not required).

- $Ba(OH)_2(s) \rightleftharpoons Ba^{2+}(aq) + 2\ OH^-(aq)$

Part B(i)

Select a point value to view scoring criteria, solutions, and/or examples and to score the response.

0	1 ✓

The response provides the correct calculated value.

- $\frac{18.5\text{ g}}{1\text{ L}} \times \frac{1\text{ mol}}{171.35\text{ g}} = 0.108\text{ mol/L}$

Part B(ii)

Select a point value to view scoring criteria, solutions, and/or examples and to score the response.

0	1 ✓

The response provides the correct calculated value, consistent with part B(i).

- $K_{sp} = [Ba^{2+}][OH^-]^2 = (s)(2s)^2 = 4s^3 = 4(0.108)^3 = 5.04\ \times 10^{-3}$

Part C

Select a point value to view scoring criteria, solutions, and/or examples and to score the response.

0	1 ✓

The response provides the correct answer and a valid justification.

- Agree. The H_3O^+ from the HNO_3 solution would react with OH^-, which would decrease $[OH^-]$, make $Q_{sp} < K_{sp}$, and result in greater dissolution of $Ba(OH)_2(s)$.

frq8

16.



H_2O molecule



LiCl crystal

The structures of a water molecule and a crystal of LiCl(*s*) are represented above. A student prepares a 1.0 *M* solution by dissolving 4.2 g of LiCl(*s*) in enough water to make 100 mL of solution.

a. In the space provided below, show the interactions of the components of LiCl(*aq*) by making a drawing that represents the different particles present in the solution. Base the particles in your drawing on the particles shown in the representations above. Include only one formula unit of LiCl and no more than ten molecules of water. Your drawing must include the following details.

• identity of ions (symbol and charge)

• the arrangement and proper orientation of the particles in the solution



LiCl (*aq*)

b. The student passes a direct current through the solution and observes that chlorine gas is produced at the anode. Identify the chemical species produced at the cathode and justify your answer using the information given in the table below.

frq8

Half-reaction	Standard Reduction Potential at 25°C (V)
$Li^+(aq) + e^- \rightarrow Li(s)$	− 3.05
$2\,H_2O(l) + 2\,e^- \rightarrow H_2(g) + 2\,OH^-(aq)$	− 0.83

Part A

1 point is earned for a correctly drawn and labeled particulate representation of the ions. (Representation must indicate that the smaller ion is Li^+. Representations that include more than one formula unit of LiCl (dissolved or undissolved) are acceptable as long as at least one of them is separated, labeled, and charged.)

1 point is earned for a correctly drawn particulate representation of water molecules of hydration surrounding the ions.

1 point is earned for correctly representing the orientation of the water molecules of hydration with the proper polarity.

The sketch should clearly show:

1. a clear representation of at least one Li^+ ion and one Cl^- ion separated from each other, labeled, and charged;
2. each ion surrounded by at least two H_2O molecules; and
3. H_2O molecules with the proper orientation around each ion (i.e., the oxygen end of the water molecules closer to the lithium ion and the hydrogen end of the water molecules closer to the chloride ion).

0	1	2	3 ✓

The student response earns three of the following points:

1 point is earned for a correctly drawn and labeled particulate representation of the ions. (Representation must indicate that the smaller ion is Li^+. Representations that include more than one formula unit of LiCl (dissolved or undissolved) are acceptable as long as at least one of them is separated, labeled, and charged.)

1 point is earned for a correctly drawn particulate representation of water molecules of hydration surrounding the ions.

1 point is earned for correctly representing the orientation of the water molecules of hydration with the proper polarity.

The sketch should clearly show:

1. a clear representation of at least one Li^+ ion and one Cl^- ion separated from each other, labeled, and charged;
2. each ion surrounded by at least two H_2O molecules; and
3. H_2O molecules with the proper orientation around each ion (i.e., the oxygen end of the water molecules closer to the lithium ion and the hydrogen end of the water molecules closer to the chloride ion).

Part B

frq8

1 point is earned for correctly identifying either of the chemical species produced at the cathode with the proper justification.

Note: The justification must clearly indicate that “higher” means “less negative.” A “lower magnitude” negative value also earns the point.

$H_2(g)$ and $OH^-(aq)$

The hydrogen atoms in H_2O are reduced to H_2 at the cathode because this reaction has a higher (more favorable or less negative) standard reduction potential than the reduction of lithium ions to $Li(s)$.

0	1 ✓

The student response earns one of the following points:

1 point is earned for correctly identifying either of the chemical species produced at the cathode with the proper justification.

Note: The justification must clearly indicate that “higher” means “less negative.” A “lower magnitude” negative value also earns the point.

$H_2(g)$ and $OH^-(aq)$

The hydrogen atoms in H_2O are reduced to H_2 at the cathode because this reaction has a higher (more favorable or less negative) standard reduction potential than the reduction of lithium ions to $Li(s)$.

frq8

17. Directions: For parts of the free-response question that require calculations, clearly show the method used and the steps involved in arriving at your answers. You must show your work to receive credit for your answer. Examples and equations may be included in your answers where appropriate.

Equimolar amounts of $NO(g)$ and $O_2(g)$ are injected into an evacuated, rigid container, where they react according to the equation below.

$$2\ NO(g) + O_2(g) \rightleftarrows 2\ NO_2(g) \qquad \Delta H^{\circ}_{rxn} = -112\,\text{kJ/mol}_{rxn}$$

(a) If 3.2 g of $O_2(g)$ is consumed in the reaction with excess $NO(g)$, how many moles of $NO_2(g)$ are produced?

(b) Which element is oxidized in this reaction? Justify your answer in terms of oxidation numbers.

The partial pressures of the gases in the container are monitored at constant temperature and recorded in the table below.

Time	P_{NO} (atm)	P_{O_2} (atm)	P_{NO_2} (atm)
t_0	1.0	1.0	0.0
t_1	0.80	0.90	0.20
t_2	0.69	0.84	0.31
t_3	0.62	0.81	0.38
t_4	0.58	0.79	0.42
t_5	0.55	0.77	0.45
t_6	0.52	0.76	0.48
t_7	0.50	0.75	0.50
t_8	0.50	0.75	0.50
t_9	0.50	0.75	0.50

(c) At time t_3, is the rate of the forward reaction greater than, less than, or equal to the rate of the reverse reaction? Justify your choice.

(d) At equilibrium, the container holds the most molecules of which gas, NO, O_2, or NO_2? Explain your answer.

frq8

(e) A student hypothesizes that if the temperature of the container is increased after time t_9, the mole fraction of O_2 in the container will increase. Do you agree or disagree with the student's hypothesis? Justify your answer.

(f) Using the data in the table, determine the value of the equilibrium constant, K_p, for the reaction represented by the equation below.

$$2\ NO(g) + O_2(g) \rightleftarrows 2\ NO_2(g)$$

(g) Using the value determined in part (f), determine the value of $K_p\prime$ for the equation shown below.

$$2\ NO_2(g) \rightleftarrows 2\ NO(g) + O_2(g) \qquad K_p\prime = \ ?$$

(h) Which gas, $NO_2(g)$ or $O_2(g)$, will behave most like an ideal gas at low temperature? Justify your choice.

Part A

Select a point value to view scoring criteria, solutions, and/or examples and to score the response.

0	1 ✓

The response shows the correct calculation of the number of moles of NO_2 .

· $3.2\ g\ O_2 \times \frac{1\ mol\ O_2}{32\ g\ O_2} = 0.10\ mol\ O_2$

$0.10\ mol\ O_2 \times \frac{2\ mol\ NO_2}{1\ mol\ O_2} = 0.20\ mol\ NO_2$

Part B

Select a point value to view scoring criteria, solutions, and/or examples and to score the response.

0	1 ✓

The response provides both the element that is oxidized and a valid justification equivalent to the following.

· Nitrogen. Its oxidation number changes from $+2$ to $+4$.

Part C

Select a point value to view scoring criteria, solutions, and/or examples and to score the response.

frq8

0	1 ✓

The response provides both the correct answer and a valid justification equivalent to one of the following.

· Greater than. The partial pressure of the product increases from time t_3 to t_4 , indicating that the forward reaction is occurring at a greater rate.

OR

· Greater than. The partial pressures of the reactants continue to decrease from time t_3 to time t_4 , indicating that the forward reaction is occurring at a greater rate.

Part D

Select a point value to view scoring criteria, solutions, and/or examples and to score the response.

0	1 ✓

The response provides both the correct answer and an explanation equivalent to the following.

· O_2 . At equilibrium (t_7, t_8, t_9) the partial pressure of O_2 is greatest, and thus the number of molecules of O_2 is greatest.

Part E

Select a point value to view scoring criteria, solutions, and/or examples and to score the response.

0	1 ✓

The response provides both a correct answer and a valid justification equivalent to one of the following.

· Agree. According to Le Châtelier's principle, the distribution of species will shift towards reactants when the temperature is increased in an exothermic reaction. Therefore, the mole fraction of O_2 will increase.

OR

· Disagree. Increasing the temperature of the constant-volume system would increase the pressure in the container. According to Le Châtelier's principle, the distribution of species will shift towards the side with the fewer number of moles. Therefore, the mole fraction of O_2 will decrease.

Part F

frq8

Select a point value to view scoring criteria, solutions, and/or examples and to score the response.

0	1 ✓

The response shows the correct calculation of K_p .

· $K_p = \frac{(P_{NO_2})^2}{(P_{NO})^2(P_{O_2})} = \frac{(0.50)^2}{(0.50)^2(0.75)} = 1.3$

Part G

Select a point value to view scoring criteria, solutions, and/or examples and to score the response.

0	1 ✓

The response shows **one** of the following.

- [ ] $K_p' = \frac{(P_{NO})^2(P_{O_2})}{(P_{NO_2})^2} = \frac{(0.50)^2(0.75)}{(0.50)^2} = 0.75$
- [ ] $K_p' = \frac{1}{K_p} = \frac{1}{1.3} = 0.75$

Part H

Select a point value to view scoring criteria, solutions, and/or examples and to score the response.

0	1 ✓

The response provides both the correct answer and a valid justification equivalent to the following.

· $O_2(g)$ will behave more like an ideal gas because O_2 has dispersion forces only, while NO_2 has dipole-dipole attractions as well as stronger dispersion forces due to a larger and more polarizable electron cloud. Therefore, $O_2(g)$ molecules have weaker overall intermolecular forces than $NO_2(g)$.

frq8

18. For parts of the free response question that require calculations, clearly show the method used and the steps involved in arriving at your answers. You must show your work to receive credit for your answer. Examples and equations may be included in your answers where appropriate.

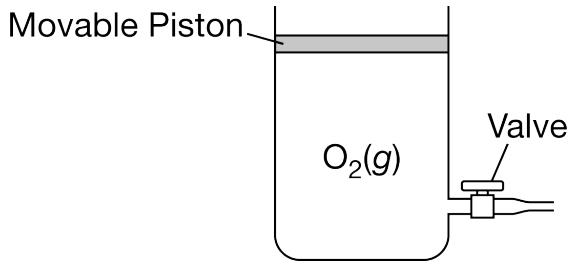

A student investigates gas behavior using a rigid cylinder with a movable piston of negligible mass, as shown in the diagram above. The cylinder contains $0.325\ \text{mol}$ of $O_2(g)$.

(a) The cylinder has a volume of $7.95\ \text{L}$ at 25°C and $1.00\ \text{atm}$. Calculate the density of the $O_2(g)$, in g/L, under these conditions.

(b) Attempting to change the density of the $O_2(g)$, the student opens the valve on the side of the cylinder, pushes down on the piston to release some of the gas, and closes the valve again. The temperature of the gas remains constant at 25°C. Will this action change the density of the gas remaining in the cylinder? Justify your answer.

(c) The student tries to change the density of the $O_2(g)$ by cooling the cylinder to -55°C, which causes the volume of the gas to decrease. Using principles of kinetic molecular theory, explain why the volume of the $O_2(g)$ decreases when the temperature decreases to -55°C.

(d) The student further cools the cylinder to -180°C and observes that the measured volume of the $O_2(g)$ is substantially smaller than the volume that is calculated using the ideal gas law. Assume all equipment is functioning properly. Explain why the measured volume of the $O_2(g)$ is smaller than the calculated volume. (The boiling point of $O_2(l)$ is -183°C.)

Part A

Select a point value to view scoring criteria, solutions, and/or examples and to score the response.

0	1 ✓

The response provides the correct calculated value.

$$0.325\,\text{mol}\,O_2 \times \frac{32.00\,\text{g}\,O_2}{1\,\text{mol}\,O_2} = 10.4\,\text{g}\,O_2$$

$$D = \frac{m}{V} = \frac{10.4\,\text{g}}{7.95\,\text{L}} = 1.31\,\text{g/L}$$

OR

frq8

$\cdot D = \frac{m}{V} = \frac{P(MM)}{RT} = \frac{(1.0\text{ atm})(32.00\text{ g/mol})}{(0.08206\frac{\text{L}\cdot\text{atm}}{\text{mol}\cdot\text{K}})(298\text{ K})} = 1.31\text{ g/L}$

Part B

Select a point value to view scoring criteria, solutions, and/or examples and to score the response.

0	1 ✓

The response provides a correct answer and a valid justification.

· No, the density of the gas remains constant because P, R, and T remain constant AND the mass and volume of O_2 decrease proportionately.

OR

· A mathematical justification is shown below.

$$D = \frac{m}{V} = \frac{n\text{ moles of }O_2 \times \text{molar mass of }O_2}{\frac{nRT}{P}} = \frac{P\times(\text{molar mass of }O_2)}{RT}$$

Part C

Select a point value to view scoring criteria, solutions, and/or examples and to score the response.

0	1 ✓

The response provides a valid explanation.

· As the gas cools, the average kinetic energy (speed) of the O_2 molecules decreases. The molecules rebound with less energy when they collide with each other and the walls of the container. The spacing between particles decreases, causing the volume occupied by the gas to decrease.

OR

· As the gas cools, the average kinetic energy (speed) of the O_2 molecules decreases. The molecules rebound with less energy when they collide with each other and the walls of the container. The only way for the molecules to maintain a constant rate of collisions with the walls of the container (maintaining a pressure of 1.00 atm) is for the volume of the gas to decrease.

Part D

Select a point value to view scoring criteria, solutions, and/or examples and to score the response.

frq8

0	1 ✓

The response provides a valid explanation.

· The ideal gas law assumes that gas particles do not experience interparticle attractions. As a real gas cools further, the intermolecular forces have greater effect as the average speed of the molecules decreases, resulting in inelastic collisions. To maintain a gas pressure of $1.00\ \mathrm{atm}$, the volume must decrease to accommodate more collisions with less energy.

frq8

19. For parts of the free-response question that require calculations, clearly show the method used and the steps involved in arriving at your answers. You must show your work to receive credit for your answer. Examples and equations may be included in your answers where appropriate.

$$6\ H^+(aq) + 2\ MnO_4^-(aq) + 5\ H_2C_2O_4(aq) \rightarrow 10\ CO_2(g) + 8\ H_2O(l) + 2\ Mn^{2+}(aq)$$

A student dissolved a $0.139\ g$ sample of oxalic acid, $H_2C_2O_4$, in water in an Erlenmeyer flask. Then the student titrated the $H_2C_2O_4$ solution in the flask with a solution of $KMnO_4$, which has a dark purple color. The balanced chemical equation for the reaction that occurred during the titration is shown above.

(a) Identify the species that was reduced in the titration reaction. Justify your answer in terms of oxidation numbers.

(b) The student used a $50.0\ mL$ buret to add the $KMnO_4(aq)$ to the $H_2C_2O_4(aq)$ until a faint lavender color was observed in the flask, an indication that the end point of the titration had been reached. The initial and final volume readings of the solution in the buret are shown below. Write down the initial reading and the final reading and use them to determine the volume of $KMnO_4(aq)$ that was added during the titration.

frq8

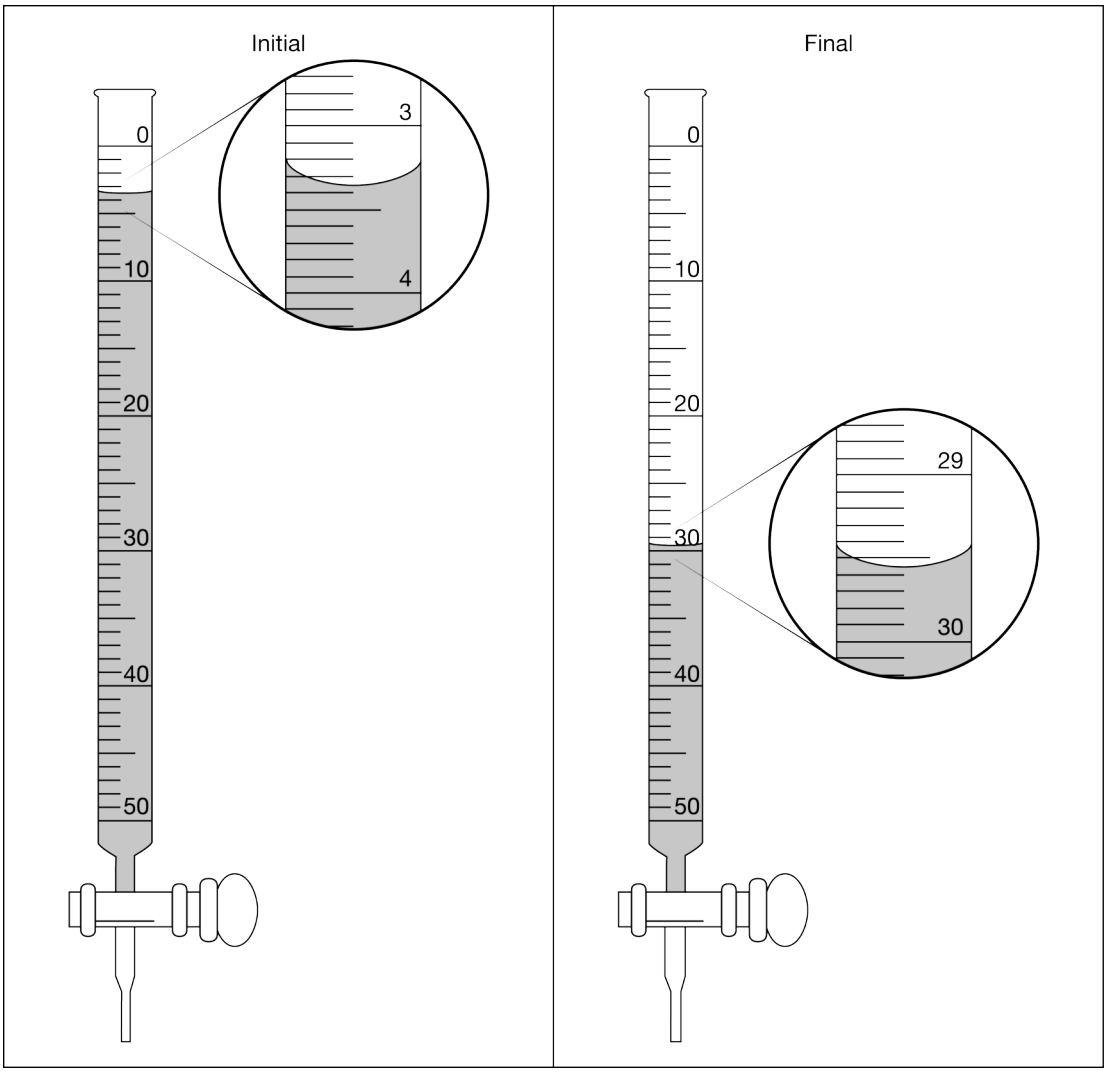

(c) Given that the concentration of $KMnO_4(aq)$ was $0.0235\ M$, calculate the number of moles of MnO_4^- ions that completely reacted with the $H_2C_2O_4$.

(d) The student proposes to perform another titration using a 0.139 g sample of $H_2C_2O_4$, but this time using $0.00143\ M\ KMnO_4(aq)$ in the buret. Would this titrant concentration be a reasonable choice to use if the student followed the same procedure and used the same equipment as before? Justify your response.

Part A

Select a point value to view scoring criteria, solutions, and/or examples and to score the response.

0	1 ✓

frq8

The response indicates that MnO_4^- is reduced to Mn^{2+} as the oxidation number of Mn changes from $+7$ to $+2$, a gain of 5 electrons.

Part B

Select a point value to view scoring criteria, solutions, and/or examples and to score the response.

0	1 ✓

The response shows a calculation similar to the following, consistent with values measured from the bottom of the meniscus on the magnified glassware illustration.

$$29.55 \text{ mL} - 3.35 \text{ mL} = 26.20 \text{ mL}$$

Part C

Select a point value to view scoring criteria, solutions, and/or examples and to score the response.

0	1 ✓

The response shows a calculation similar to the following and is consistent with the answer in part (b) and maintains 3 significant figures from the molarity.

$$(0.02620 \text{ L})(0.0235 \text{ mol/L}) = 0.000616 \text{ mol}$$

Part D

Select a point value to view scoring criteria, solutions, and/or examples and to score the response.

0	1 ✓

The response meets both of the following criteria.

- ☐ · The response indicates “No”.
- ☐ · The response indicates that the $0.00143\ M$ titrant solution is so diluted that the volume of titrant needed to reach the end point would be much greater than the 50 mL capacity of the buret.

frq8

20. For parts of the free response question that require calculations, clearly show the method used and the steps involved in arriving at your answers. You must show your work to receive credit for your answer. Examples and equations may be included in your answers where appropriate.

A student conducts a solubility experiment with potassium nitrate, KNO_3, in water by identifying the temperature at which various masses of KNO_3 will completely dissolve.

(a) At room temperature, H_2O is a liquid and KNO_3 is a solid. The student incorrectly claims that this is because potassium and nitrate ions experience stronger dispersion forces than H_2O molecules. In terms of the types of attractive forces, explain why the student is incorrect.

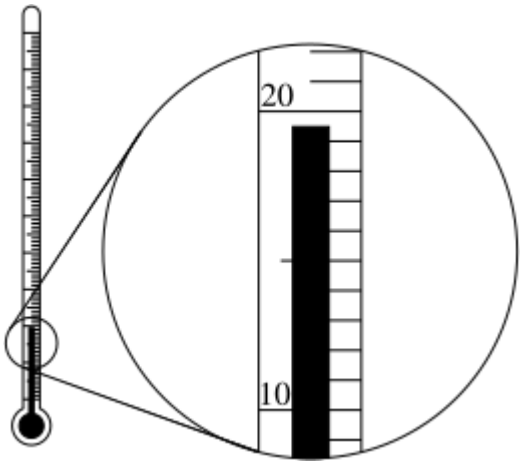

(b) In one of the trials, the student reads the initial temperature of the water using the Celsius thermometer above. Record this temperature to the appropriate number of significant figures.

(c) At the temperature indicated on the thermometer, the student adds the solid KNO_3 to the sample of water and begins to stir the mixture. Explain the effect of stirring on the maximum amount of solid that can dissolve in the water.

frq8

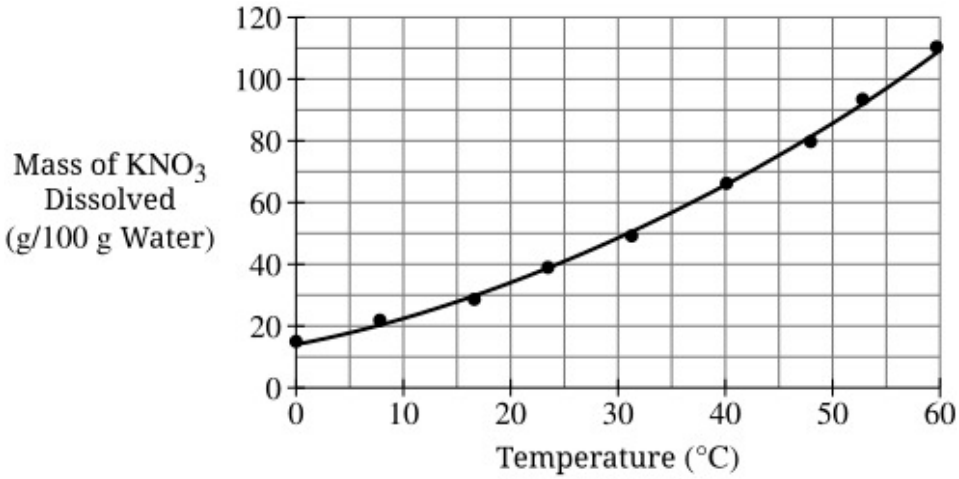

The graph above summarizes the data collected by the student.

(d) Another student places 38.1 grams of KNO_3 into 100.0 g of water at the temperature measured in part (b), stirs the mixture, and observes that the solid does not dissolve completely. The student plans to heat the mixture and states that the solid will completely dissolve before the mixture reaches $30^\circ C$. Do you agree with the claim? Justify your answer with information from the graph.

Part A

Select a point value to view scoring criteria, solutions, and/or examples and to score the response.

0	1 ✓

The response provides a correct explanation.

- Dispersion forces are weaker than the ionic bonds present in KNO_3, and dispersion forces are not the dominant attractive force that leads to the properties of ionic compounds; dispersion forces of attraction are more relevant between molecules in molecular compounds.

Part B

Select a point value to view scoring criteria, solutions, and/or examples and to score the response.

0	1 ✓

The response provides the correct answer.

frq8

- $19.5^\circ C$

Part C

Select a point value to view scoring criteria, solutions, and/or examples and to score the response.

0	1 ✓

The response provides a correct explanation.

- The stirring will not affect the maximum amount of KNO_3 that will dissolve (which depends on the equilibrium between the solid and the dissolved ions), only the rate at which the solid dissolves.

Part D

Select a point value to view scoring criteria, solutions, and/or examples and to score the response.

0	1 ✓

The response provides the correct answer and justification.

- Agree. According to the graph, the maximum solubility at $30^\circ C$ should be approximately 48 g so 38.1 g is not enough solute to make a saturated solution at this temperature, so the solid should completely dissolve.

frq8

21. For parts of the free response question that require calculations, clearly show the method used and the steps involved in arriving at your answers. You must show your work to receive credit for your answer. Examples and equations may be included in your answers where appropriate.

For parts of the free response question that require calculations, clearly show the method used and the steps involved in arriving at your answers. You must show your work to receive credit for your answer. Examples and equations may be included in your answers where appropriate.

A student performs a spectrophotometry experiment using solutions of $\mathrm{Ni}\,(\mathrm{ClO_4})_2(aq)$. The student needs to make a standard curve and determine the concentration of $\mathrm{Ni}\,(\mathrm{ClO_4})_2(aq)$ in a sample with an unknown concentration.

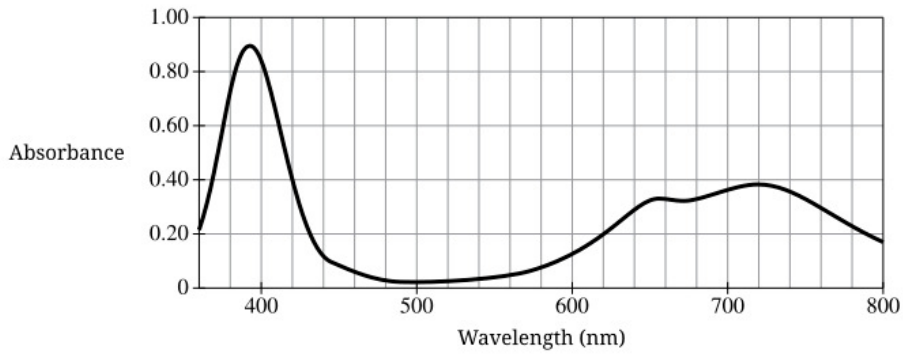

(a) Based on the absorbance spectrum of $\mathrm{Ni}\,(\mathrm{ClO_4})_2(aq)$ shown in the preceding graph, what wavelength should the student use in the experiment to achieve the greatest precision?

(b) To make the standard curve, the student must prepare $\mathrm{Ni}\,(\mathrm{ClO_4})_2(aq)$ solutions with different concentrations. The student has a standard solution of $\mathrm{Ni}\,(\mathrm{ClO_4})_2(aq)$ with a concentration of $0.198\ M$. Calculate the volume, in mL, of $0.198\ M\quad \mathrm{Ni}\,(\mathrm{ClO_4})_2(aq)$ that is needed to prepare $250.0\ \mathrm{mL}$ of $0.0400\ M\quad \mathrm{Ni}\,(\mathrm{ClO_4})_2(aq)$.

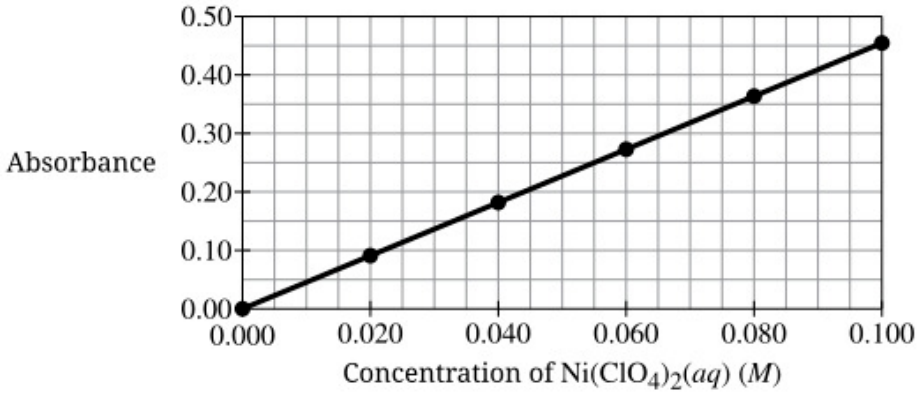

frq8

(c) The standard curve generated by the student is provided above. The student measures an absorbance of 0.30 for the unknown solution. Using the standard curve provided, determine the molarity of $\mathrm{Ni}\left(\mathrm{ClO}_4\right)_2(aq)$ in the unknown solution.

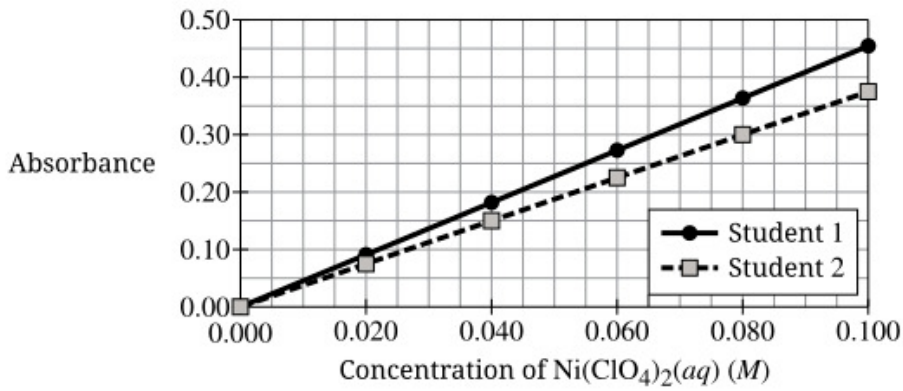

(d) A second student repeats the procedure using the same spectrophotometer but makes an error, which results in the dashed line shown in the graph above. Assuming that the first student's data (shown by the solid line) are correct, identify one error that could account for the second student's standard curve being less steep than that obtained by the first student.

Part A

Select a point value to view scoring criteria, solutions, and/or examples and to score the response.

0	1 ✓

The response provides a correct answer.

- $391\ \mathrm{nm}$ (acceptable range: $385\ \mathrm{nm} - 395\ \mathrm{nm}$)

Part B

Select a point value to view scoring criteria, solutions, and/or examples and to score the response.

0	1 ✓

The response provides the correct calculated value.

frq8

- $M_1V_1 = M_2V_2$
  $V_2 = \frac{M_1V_1}{M_2} = \frac{(0.0400\ M)(250.0\ \text{mL})}{0.198\ M} = 50.5\ \text{mL}$

Part C

Select a point value to view scoring criteria, solutions, and/or examples and to score the response.

0	1 ✓

The response provides a correct value.

- $0.067M$ (If reading from the graph, acceptable range is $0.065 - 0.068\ M$)

  OR

- $\frac{0.45}{0.100M} = \frac{0.30}{x}, x = 0.067M$

Part D

Select a point value to view scoring criteria, solutions, and/or examples and to score the response.

0	1 ✓

The response provides a correct answer.

- Student 2 used a lower concentration of $\text{Ni}(\text{ClO}_4)_2(aq)$ (less concentrated stock solution, added too much water, used a wet cuvette, etc.)

OR

- Student 2 used a wavelength other than the wavelength of maximum absorbance.

OR

- Student 2 used a cuvette with a shorter path length.

frq8

22. For parts of the free response question that require calculations, clearly show the method used and the steps involved in arriving at your answers. You must show your work to receive credit for your answer. Examples and equations may be included in your answers where appropriate.

For parts of the free response question that require calculations, clearly show the method used and the steps involved in arriving at your answers. You must show your work to receive credit for your answer. Examples and equations may be included in your answers where appropriate.

Strontium hydroxide dissolves in water according to the following equation. The K_{sp} expression for strontium hydroxide is provided.

$$\mathrm{Sr(OH)_2}(s) \rightleftarrows \mathrm{Sr^{2+}}(aq) + 2\ \mathrm{OH^-}(aq) \qquad K_{sp} = \left[\mathrm{Sr^{2+}}\right]\left[\mathrm{OH^-}\right]^2$$

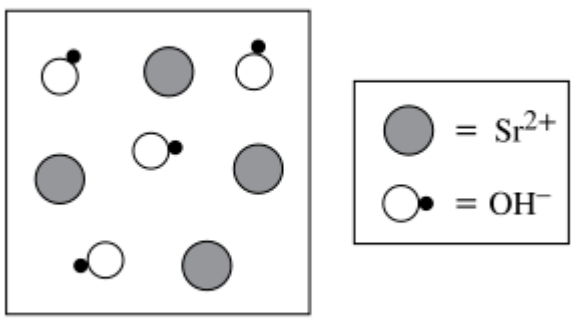

(a) A student draws the particulate diagram shown to represent the ions present in an aqueous solution of $\mathrm{Sr(OH)_2}$. (Water molecules are intentionally omitted.) Identify the error in the student's drawing.

(b) The student prepares a saturated solution by adding excess $\mathrm{Sr(OH)_2}(s)$ to distilled water and stirring until no more solid dissolves. The student then determines that $\left[\mathrm{Sr^{2+}}\right] = 0.043\ M$ in the solution.

(i) Calculate the value of $\left[\mathrm{OH^-}\right]$ in the solution.

(ii) Calculate the value of K_{sp} for $\mathrm{Sr(OH)_2}$.

(c) The student prepares a second saturated solution of $\mathrm{Sr(OH)_2}$ in aqueous $0.10\ M\ \mathrm{Sr(NO_3)_2}$ instead of water. Will the value of $\left[\mathrm{OH^-}\right]$ in the second solution be greater than, less than, or equal to the value in the first solution? Justify your answer. (Assume constant temperature.)

Part A

frq8

Select a point value to view scoring criteria, solutions, and/or examples and to score the response.

0	1 ✓

The response provides a correct answer.

- The student's drawing shows an incorrect ratio of Sr^{2+} and OH^- ions.

  OR

- The student's drawing is not charge-balanced.

Part B(i)

Select a point value to view scoring criteria, solutions, and/or examples and to score the response.

0	1 ✓

The response provides the correct calculated value.

- $\frac{0.043 \text{ mol } Sr^{2+}}{1 \text{ L}} \times \frac{2 \text{ mol } OH^-}{1 \text{ mol } Sr^{2+}} = 0.086\ M\ OH^-$

Part B(ii)

Select a point value to view scoring criteria, solutions, and/or examples and to score the response.

0	1 ✓

The response provides the correct calculated value, consistent with part (b)(i).

- $K_{sp} = [Sr^{2+}][OH^-]^2 = (0.043)(0.086)^2 = 3.2 \times 10^{-4}$

Part C

Select a point value to view scoring criteria, solutions, and/or examples and to score the response.

0	1 ✓

frq8

The response provides the correct answer and a valid justification.

- Less than. Because the $Sr(NO_3)_2(aq)$ solution already contains a common ion, $Sr^{2+}(aq)$, the solubility of $Sr(OH)_2$ will be decreased, resulting in a lower value of $[OH^-]$.